Math 8 — Functions and Modeling

Neil Donaldson

Spring 2026

Introduction

This course aims refresh and reinforce some of the conceptual foundations of grade-school mathematics for future teachers. Teaching is often a matter of *selection*: choosing examples and explanations suited to the level of your students. To do this effectively, you must understand concepts at a higher level than you teach. The *mathematics* in this course shouldn't be difficult for math majors. Instead this is an opportunity to think about content you might one day teach. How would *you* explain the material? How does it connect to other ideas? Can you anticipate students' questions, and how would you respond?

We start with two motivational problems.[1]

1. How can we travel across the surface of a cube between two opposite vertices so that the path is as short as possible? Should you follow the path indicated? If yes, explain why. If not, how should you find the shortest path?

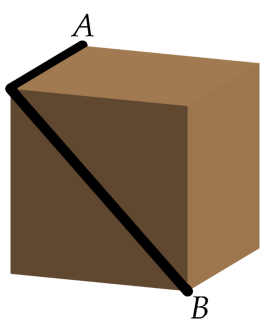

Problem 1

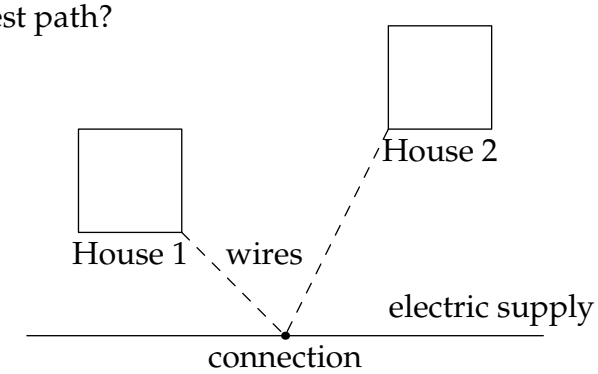

Problem 2

2. Two houses are to be connected to the electricity supply using a single connection. How should we determine where to place the connection so as to minimize the required length of wire? What information do you need in order to find the connection point?

Don't just think about the right answer! Consider how you might discuss these problems with students of different ability levels. Why might calculus *not* be a sensible approach? Are there any similarities between the two problems? Brainstorm some strategies...

[1] We are grateful to materials from UT Austin's UTeach program for suggesting several of the examples in this course including these motivational problems.

1 Sets & Functions

1.1 Basic Definitions

When did you first encounter a function? Middle-school? Elementary school? Earlier...How would you define *function* to someone with limited mathematical knowledge? Would you use words like *rule, assign, element, domain, vertical line test,* etc.? How helpful are these to your audience?

Examples 1.1. How would you explain the idea that the following do or do not represent functions?

1. $y = x^2$
2. Mon: fish, Tue: pork, Wed: fajitas, Thur: carbonara, Fri: pizza
3. $(3,5), (2,6), (4,2), (3,1)$.
4. $x^2 = y^2$

After considering the examples, perhaps you settle on a semi-formal definition:

A function f is rule assigning exactly one output $f(x)$ to each input x

Is this a useful definition? In what ways is it imprecise? Does the imprecision matter?

Of course the answers to these questions depend on your audience! What ideas do you want to convey to your students, and can you do so without overburdening and intimidating them? To begin working towards a more complete picture, we need to think about what the *inputs* and *outputs* are allowed to be. This introduces some vocabulary and requires a small amount of set notation.

Definition 1.2. A *set* A is a collection of objects, or *elements*.[2] The notation $a \in A$ means that a is an element of A, sometimes read 'a lies in A.' In the abstract, sets are often written upper case and their elements in lower case.

A set B is a *subset* of a set A, written $B \subseteq A$, if every element of B is also an element of A: that is,

$$b \in B \implies b \in A \qquad \text{("If } b \text{ lies in } B\text{, then } b \text{ lies in } A\text{")}$$

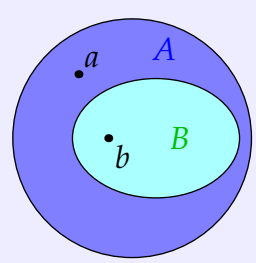

The picture illustrates sets A, B and elements a, b for which $B \subseteq A$, $a \in A$, $b \in B$ and $a \notin B$ (a does not lie in B).

The reason we need this language when discussing functions is that the inputs and outputs of a function are *elements of sets*.

[2] This is enough for our purposes, though a course in set theory should convince you that this definition is not without its own problems. Selection is always at work...

Example 1.3. Suppose the elements of a set A are the numbers $1, 3, 5, 7$ and 9. The simplest way to write this is using *roster notation*: we list the elements (in any order) between braces

$$A = \{1, 3, 5, 7, 9\}$$

Subsets are commonly expressed using *set-builder notation*. Here is a subset of A:

$$B = \{a \in A : 2 < a < 8\} \qquad \text{("The set of } a \text{ in } A \text{ such that } a \text{ lies strictly between 2 and 8")}$$

In roster notation, $B = \{3, 5, 7\}$. Can you express B in other ways using set-builder notation?

Several familiar sets of numbers can be expressed using informal combinations of these notations.

Natural numbers $\mathbb{N} = \{1, 2, 3, 4, \ldots\}$. For instance, $5 \in \mathbb{N}$ but $-3 \notin \mathbb{N}$. Most students think this is the meaning of *number* until they've done *lots* of math.

Integers $\mathbb{Z} = \{\ldots, -2, -1, 0, 1, 2, 3, \ldots\}$. For instance, $-4 \in \mathbb{Z}$ but $\frac{4}{5} \notin \mathbb{Z}$.

Rational numbers (fractions) $\mathbb{Q} = \{\frac{p}{q} : p \in \mathbb{Z},\ q \in \mathbb{N}\}$. For instance $-\frac{6}{7} \in \mathbb{Q}$.

Real numbers $\mathbb{R}$. For instance, $\sqrt{2} \in \mathbb{R}$. A formal definition is difficult, though we often informally visualize $\mathbb{R}$ as a *ruler*. *Intervals* are particularly important subsets, e.g.,

$$[-4, \pi) = \{x \in \mathbb{R} : -4 \leq x < \pi\} \qquad \text{(a half-open interval)}$$

You should also have informally encountered the notion of *irrationality*: for instance, $\sqrt{2}$ and π are real numbers but not rational numbers.

The subset relationships between these sets are in the order listed: $\mathbb{N} \subseteq \mathbb{Z} \subseteq \mathbb{Q} \subseteq \mathbb{R}$.

We now turn to a *very* formal definition of function.

Definition 1.4. The *Cartesian product* of sets A and B is the set of *ordered pairs*

$$A \times B = \{(a, b) : a \in A, b \in B\}$$

A *function* from A to B is a non-empty subset $f \subseteq A \times B$ which satisfies the *vertical line test*:

$$\text{For each } a \in A, \text{ there is a } \textit{unique } b \in B \text{ such that } (a, b) \in f \qquad (*)$$

Instead of writing $f \subseteq A \times B$ and $(a, b) \in f$, we use the more familiar notation

$$f : A \to B \quad \text{and} \quad f(a) = b$$

To a function $f : A \to B$ are associated three useful sets:

- Domain: $\operatorname{dom} f = A$ is the set of *inputs.*
- Codomain: $\operatorname{codom} f = B$ is the set of *possible outputs.*
- Range: $\operatorname{range} f = \{b \in B : b = f(a) \text{ for some } a \in A\}$ is the set of *realized outputs.*

This probably isn't the definition you should give to 10th graders! How much of this is helpful in a given context? Is it important that *you've* been exposed to this definition?

Example (1.1.2 cont.). We revisit our food-based example in this formal setting. To properly view this as a function $f : A \to B$, we have to carefully label the constituent sets.

$$A = \{\text{Mon, Tue, Wed, Thu, Fri}\}, \qquad B = \{\text{carbonara, fajitas, fish, pizza, pork}\},$$

$$f = \{(\text{Mon, fish}),\ (\text{Tue, pork}),\ (\text{Wed, fajitas}),\ (\text{Thu, carbonara}),\ (\text{Fri, pizza})\}$$

The domain A should be clear, but we had to make a choice for the codomain B: in this case we made it to equal to *range*. Can you suggest a different choice for B? Note how the function is simply the list of ordered pairs (day, food). Try the other examples yourself.

Representing Functions

Functions can be represented in various ways. We illustrate a few in an example.

Example 1.5. We consider the familiar *formula/rule* $f(x) = x^2$ in several contexts.

Table This presentation is most helpful when the domain is very small.

x	-1	0	1	2	3
$f(x)$	1	0	1	4	9

Arrows Also useful when the domain is small. Both this and the table describe f when $\operatorname{dom} f = \{-1, 0, 1, 2, 3\}$ and $\operatorname{range} f = \{0, 1, 4, 9\}$.

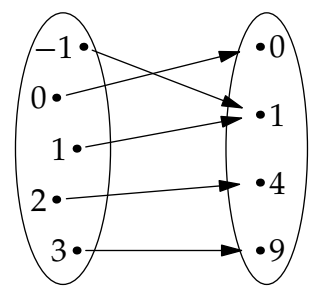

Graph This is the set of ordered pairs $\{(x, x^2) : x \in \operatorname{dom} f\}$. In the context of the formal definition (1.4), *the graph is the function!*

For formulæ whose inputs and outputs are real numbers, two conventions are often observed:

- The domain is *implied* to be all values for which the formula makes sense (don't do silly stuff like dividing by zero!).
- The codomain is the set of real numbers.

If no other information is provided, we'd assume that the formula $f(x) = x^2$ represents a function $f : \mathbb{R} \to \mathbb{R}$, in which case the range (the set of realized outputs) is the interval

$$\operatorname{range} f = \{x^2 \in \mathbb{R} : x \in \mathbb{R}\} = [0, \infty)$$

For 'calculus functions' like this, the vertical line test $(*)$ really does involve vertical lines; every vertical line intersects the graph in precisely one point.

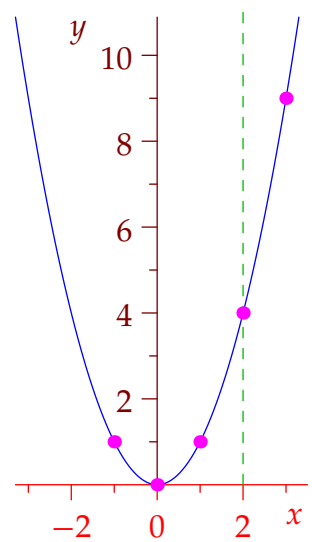

In the picture, the dots are the graph when the domain is the set $\{-1, 0, 1, 2, 3\}$ (as described in the table/arrow-diagram).

Are there other ways to represent a function? How might your audience influence your choice?

We'll have many more chances to analyze and represent functions as we move on. The challenge here is primarily one of vocabulary. A student has perhaps 15 years—elementary school to early college—to become comfortable with all this language. How would you help a student, regardless of where they are on that journey, to take the next step?

Exercises 1.1. *Key concepts: Function, Domain, Range, Codomain, Representations of Functions, Multiple descriptions/selection*

1. Let d represent the cost in millions of dollars to produce n cars, where n is measured in 1000s. As clearly as you can, explain what is meant by $d(25) = 431$.

2. A movie theater seats 200 people. For any particular show, the amount of money the theater takes in is a function of the number of people n in attendance. If a ticket costs \$25, describe the domain and range of the function using set notation.

3. Temperature readings T were recorded every two hours from midnight to noon. Time t was measured in hours from midnight.

t	0	2	4	6	8	10	12
T (°F)	82	75	74	75	84	90	93

   Plot the readings and use them to sketch a rough graph of T as a function of t. Now use your graph to estimate the temperature at 10:30 a.m..

4. State parts 1, 3 and 4 of Example 1.1 using the formal language of Definition 1.4. If you have a function, state the domain and range and explain how you know you have a function. If you don't have a function, explain why not.

   (*Since insufficient information is provided, there is no single correct answer!*)

5. (a) Let $A = \{1, 3, 5, 7, 9\}$. Explain in words what is meant by the set

$$B = \{x \in A : x^2 > 10\}$$

   Now state B in roster notation.

   (b) Find the set $C = \{x \in \mathbb{N} : (x-1)^2 < 16\}$ in roster notation.

   (c) Find the Cartesian product $B \times C$ in roster notation. Is it the same as $C \times B$?

6. Suppose that $f : \{-2, -1, 0, 1, 2\} \to \mathbb{R}$ is defined by the formula $f(x) = x^3 - 4x + 1$.

   Describe f using a table, an arrow diagram and a graph.

7. Find the implied domain and range (as subsets of the real numbers $\mathbb{R}$) for the functions defined by each rule:

   (a) $f(x) = \frac{x^2-4}{x-2}$

   (b) $g(x) = \sqrt{x^2 - 16x}$

   (c) $h(x) = \frac{1}{x}\sqrt{4x - x^2}$

   (*What is the largest set of real numbers for which the formula makes sense?*)

8. You should be familiar with the Cartesian plane: $\mathbb{R}^2 = \{(x, y) : x, y \in \mathbb{R}\}$. This is the set of ordered pairs, typically thought of as co-ordinates.

   (a) Draw a picture of the set $A = \{(x, \sqrt{x}) : x \geq 0\}$. Is this the graph of a function? Explain.

   (b) Draw a picture of the set $B = \{(y^2, y) : y \in \mathbb{R}\}$. Is this the graph of a function? Explain.

   (c) Draw a picture of the *set* $C = \{3, 4\} \times (3, 4)$. Be careful to distinguish between an ordered pair and an interval. Consider how you would explain this to a student.

9. You ask your students to determine the range of the function f defined by the rule $f(x) = x^2$ with domain the interval $[-5, 2]$. You obtain various responses, including $[25, 4]$, $[4, 25]$, and $[-25, 4]$.

   What is going wrong? What is the correct answer, and how would you explain it to your students?

   More generally, if $\operatorname{dom} f = [a, b]$ (where $a \leq b$), what is $\operatorname{range} f$?

10. The unit circle is often represented by the implicit equation $x^2 + y^2 = 1$.

    (a) Draw the circle and explain why the full circle isn't the graph of a function.

    (b) Describe *two* functions $f : [-1, 1] \to \mathbb{R}$ and $g : [-1, 1] \to \mathbb{R}$ whose graphs together comprise the circle. What are the ranges of each function?

11. Functions become more difficult when they take functions as inputs! You've already encountered this in calculus. Here are two examples.

    (a) The differential operator $D = \left.\frac{\mathrm{d}}{\mathrm{d}x}\right|_{x=0}$ can be thought of as a function: $D(f) = f'(0)$ takes as its input a function f and returns its derivative evaluated at $x = 0$.

    Give an example of a function f which does not lie in the (implied) domain of D.

    (b) (If you've done integral calculus) Let I be the integral operator $I = \int_0^x$ whose domain is the set of continuous functions $f : \mathbb{R} \to \mathbb{R}$. Otherwise said, if f is a continuous function with domain $\mathbb{R}$, then $I(f) = \int_0^x f(t)\,\mathrm{d}t$.

    State at least one function that is *not* in the range of I. Explain your answer!

1.2 Linear Polynomials

Perhaps the simplest functions are those whose graphs are straight lines. These are the *linear polynomials*,

$$y = f(x) = mx + c, \tag{$*$}$$

where m, c are constants. Such functions make for very simple models:[3]regardless of the initial input, if we increase x by Δx, then the output changes by a constant multiple $\Delta y = m\Delta x$.

By this stage of your mathematical career, you should be *very* familiar with linear polynomials. From a teaching viewpoint this can be dangerous. The real challenge is how to explain your understanding to those who don't have it. For instance, some of your earliest forays into algebra likely involved finding equations of the straight line through two given points. Ask a college freshman how to solve such a problem and they'll likely offer some version of the *point-slope formula*. But what is this, and why does it work? More importantly, could you teach it?

Abstract concepts in mathematics are very often just a way of writing down all possible examples simultaneously. In such a case, it is usually better to start with an example first before sharing any general formulæ. Here are two questions you could use to introduce abstract concepts around linear polynomials.

1. How to graph $y = mx + c$? Why is the graph a straight line?

Example 1.6. Suppose we want to graph $y = f(x) = \frac{1}{2}x + 1$.

One way to start is to consider the most obvious point on the graph: plug in $x = 0$ to obtain $y = 1$ and the point $(0, 1)$. Next, consider other values of x, for instance integers, and plot these:

x	0	1	2	3	4
$f(x)$	1	1.5	2	2.5	3

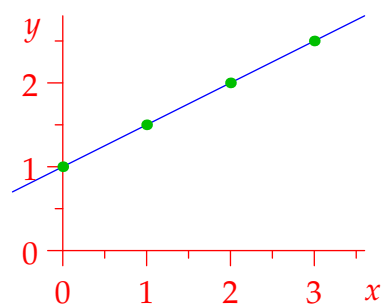

Joining these points, it certainly appears as if the graph is a straight line. At this stage you may have enough to convince a middle-school student.

In the abstract, to graph $y = f(x) = mx + c$,

- Find the y-intercept: $x = 0 \implies y = f(0) = c$ yields the point $(0, c)$.
- Plot a few more points $(1, m + c)$, $(2, 2m + c)$, $(3, 3m + c)$ and draw the line through them.

But what if a student is not convinced? What if you are teaching higher-level students? Just because the graph *looks like* a line doesn't guarantee that it is a line. At this point you might have to appeal to some elementary geometry: *similar triangles.*

[3]Given experimental data or a physical situation relating two quantities x and y, a *linear model* is an linear polynomial $(*)$. In practice, models only *approximate* to real-world data. Later in the course we'll consider what should be meant by, and how to find, a 'good' linear model for approximately linear data.

Plot three points: the y-intercept $(0, c)$, the point $(1, 1 + c)$, and a general point $(x, mx + c)$, and complete two right-triangles as pictured. These triangles are *similar*. Why?

- Perhaps your students observe that both are right-angled with the same slope:

$$\frac{\text{rise}}{\text{run}} = \frac{m}{1} = \frac{mx}{x}$$

- Perhaps they've studied trigonometry and say that the left angle in both triangles is $\arctan m$.

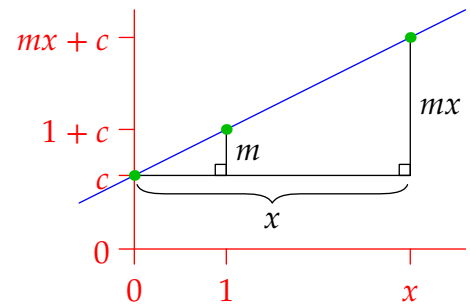

Both observations are just rephrasings of Euclid's SAS triangle similarity theorem.[4]

2. How to find the equation of the line through two points?

Example 1.7. We find the equation of the linear polynomial $y = mx + c$ passing through the points $A = (1, 3)$ and $B = (4, 1)$.

Plainly the first thing to do is to plot the given points relative to some axes, and sketch the straight line.
The natural approach is to substitute both given points into the equation to find two relationships between m and c

$$\begin{cases} 3 = m + c \\ 1 = 4m + c \end{cases}$$

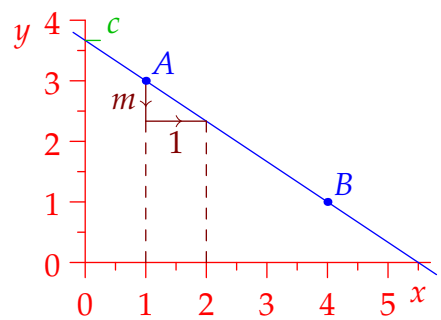

Your students might be comfortable solving this system of equations algebraically for m and c. But algebra is only convincing if you're already comfortable with the language! Instead consider what you are trying to motivate: the *point-slope formula*. We want the slope m, so...

Ask the students how to get from point A to point B. Hopefully you get some version of *along three and down two*. But they've just told you the slope!

$$m = \frac{\text{rise}}{\text{run}} = \frac{2 \text{ down}}{3 \text{ along}} = -\frac{2}{3}$$

To get to any other point $P = (x, y)$ on the line, we're back to similar triangles:

$$-\frac{2}{3} = m = \frac{\text{rise}}{\text{run}} = \frac{y - 3}{x - 1}$$
$$\implies y = 3 - \frac{2}{3}(x - 1) = \frac{1}{3}(11 - 2x)$$

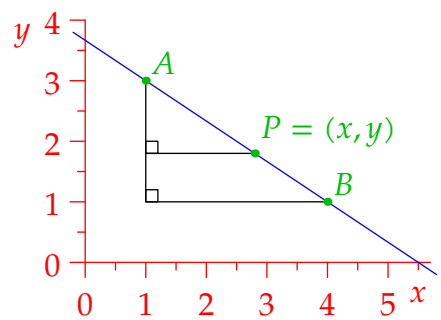

[4] If two triangles have two pairs of sides in a common ratio (here m) and the angle between them congruent (here 90°), then the triangles are similar. This result is *much* older (c. 2300 years) than the concept of graphs and equations like $f(x) = mx + c$ (400 years).

This process works for any two given points with distinct x co-ordinates.

Theorem 1.8 (Point-slope formula). *If $x_A \neq x_B$, then the straight line through points $A = (x_A, y_A)$ and $B = (x_B, y_B)$ has slope*

$$m = \frac{\Delta y}{\Delta x} = \frac{y_B - y_A}{x_B - x_A}$$

and equation

$$y = y_A + m(x - x_A) = y_A + \frac{y_B - y_A}{x_B - x_A}(x - x_A)$$

The details are in Exercise 5. Depending on their level, the abstract point-slope formula might be too intimidating for your students. Even if they are capable of applying it, you might feel that its derivation is beyond them. Indeed it might be so for some students, but consider several counterpoints:

- Once a student has developed comfort with concrete examples, the point-slope formula and its proof help to summarize and unify what they've learned. An abstract discussion can help build confidence by convincing a student that any such problem can be solved the same way.
- The most helpful elementary proofs are those which replicate an examples. Exercise 5 involves no trickery; it simply *reinforces the core technique* by applying it in general.
- Encouraging students to think abstractly is an overarching learning outcome of mathematics. You might get push-back, but it's part of the job...

Another common issue is that students resist examples and clamor for the point-slope formula: "So we just need to memorize the formula, right?" In the moment, the desire for *efficiency* often dominates student thinking: they have many demands on their time and are tempted by a short-cut, the promising of knowing how to do a problem without putting in the work necessary to understand how or why it works. Fighting against this is hard, but consider the following.

- Effective learning is rarely efficient. Your goal as a teacher is often to force students to think slowly about something, even when they don't want to.
- Memorizing formulae and algebraic algorithms sacrifices geometric intuition. Mathematics is a language for modeling and describing the real world. The pictures, the *geometry*, are what is real.
- Mathematics is interconnected. In this case, the fundamental underlying concept of the point-slope formula is SAS similarity. Linking the discussion to this helps motivate the study of and reinforce foundational geometry.
- You are doing a student no favors by letting them get away with a *see this do that* approach to mathematics. By the end of high-school, there are too many concepts to memorize this way. Your job is to build the scaffolding, not paint the wall for them...

Modeling with straight lines

Often the challenge of modeling lies in converting a word problem into algebra—don't underestimate how hard students find this! Here is a simple, if disguised, straight line model.

Example 1.9. Beaker A contains a 300 ml solution of a 2% acid. Beaker B contains 400 ml of the same acid but of unknown concentration. When the beakers are mixed together the result is an acid with concentration 6%. What was the concentration in beaker B?

It should seem natural to denote the unknown concentration (beaker B) by x. After mixing:

- The total volume of the solution is $300 + 400 = 700$ ml.
- The solution contains $300 \times \frac{2}{100} + 400x = 6 + 400x$ ml of pure acid.

Putting this together, the concentration of the resulting solution is a linear polynomial function of x:

$$C(x) = \frac{6 + 400x}{700}$$

The problem is now easily solved: $C(x) = \frac{6}{100} \implies x = \frac{9}{100} = 9\%$.

While the algebra in the example is straightforward to those with sufficient experience, consider what natural mistakes grade-school students might make with this problem...

Parametrized Lines

Here is an alternative visualization of a straight line. Imagine placing a *ruler* so that its zero point is at the origin $O = (0, 0)$ and its "1" lies at a point $P = (p, q)$. If t (a real number) is the number on the ruler, then the points on the line have co-ordinates

$$tP = (tp, tq) \tag{$*$}$$

To describe the line through points A and B, place a virtual ruler so that 0 corresponds to A and 1 to B. Slide the ruler so that A moves to the origin O: this amounts to *subtracting* the co-ordinates of A from all points on the line. We obtain a *parallel line* through the origin, with B transformed to $P = B - A$. Putting this together with $(*)$ results in a parametrized description of the line:

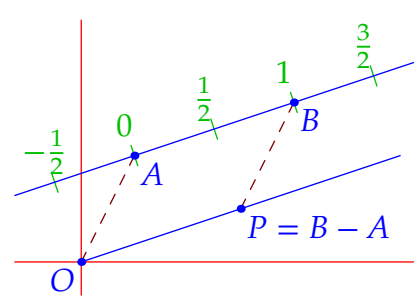

$$\begin{aligned}(x, y) &= A + tP = A + t(B - A) \\ &= (1 - t)A + tB\end{aligned}$$

The points corresponding to various values of t are marked.

Contrast this description with the linear polynomial approach. One challenge is that a line may be parametrized using infinitely many different rulers (choose *any* two points on the line!),

whereas the linear polynomial description is unique. Does the parametrized approach have any advantages? Which description is easier to understand or to work with?

In the Exercises we make sure that the two descriptions of a line correspond. The discussion is little more than the generalization of an example.

Example 1.10. The line through points $A = (3, 6)$ and $B = (-1, 4)$ may be parametrized

$$(x, y) = (1 - t)(3, 6) + t(-1, 4) = \big(3 - 4t, 6 - 2t\big)$$

To convert this to a linear polynomial, first solve for t in terms of x,

$$x = 3 - 4t \implies t = \frac{1}{4}(3 - x)$$

Now substitute this into our expression for y:

$$y = 6 - 2t = 6 - \frac{2}{4}(3 - x) = \frac{1}{2}x - \frac{9}{2}$$

Exercises 1.2. *Key concepts: Linear Polynomial, Relationship with a straight line, Point-slope formula, Parametrizing a line using a ruler*

1. The cost of gasoline is \$4.20 per gallon on January 1st and \$4.90 on March 1st. State a *linear* function/model for the cost of gasoline as a function of time.

2. You have a choice of three different cell-phone plans.

   (a) No monthly charge and 10¢ per minute for all calls.

   (b) \$10 per month and 5¢ per minute for all calls.

   (c) \$30 per month, regardless of how many calls you make.

   How should you determine which plan to purchase?

3. Revisit Exercise 1.1.3. Find an approximate linear model $T(t) = mt + c$ for this data.

   (*There is no perfect answer*)

4. Revisit the beakers problem (Example 1.9). This time suppose we know that the concentration in beaker B is 9%. How much from beaker B should we pour into beaker A to obtain an acid with concentration 5%? Would you consider this a linear polynomial problem? Why/why not?

5. Suppose points $A = (x_A, y_A)$ and $B = (x_B, y_B)$ are given.

   (a) If $x_B \neq x_A$, use the method of Example 1.7 to prove the point-slope formula (Theorem 1.8). Otherwise said: find the equation $y = mx + c$ of the line through these points.

(b) Find a parametrized description of the same line (page 10) where A corresponds to 0 and B to 1. If $x_B \neq x_A$, make things match up with your answer to part (a).
What parametrization do you get if $A = (0, c)$ and $B = (1, m + c)$?

6. A straight line is sometimes described as the set of points $(x, y) \in \mathbb{R}^2$ satisfying an equation of the form

$$ax + by = c$$

where a, b, c are constants and a, b are not both zero. How does this approach differ from our use of linear polynomials? Are these descriptions covering exactly the same collection of objects?

7. Throughout mathematics (particularly within *linear algebra*), a function $f : \mathbb{R} \to \mathbb{R}$ is said to be *linear* if it satisfies the condition

$$\text{For all } \lambda, x \in \mathbb{R}, \quad f(\lambda x) = \lambda f(x)$$

Is this the same thing as a linear polynomial? Explain.