2 Trigonometric Functions and Polar Co-ordinates

In this chapter we review trigonometry and periodic functions and discuss their relation to polar co-ordinates. Some of this will be non-standard.

2.1 Definitions & Measuring Angles

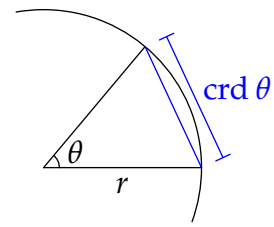

Trigonometric functions date back at least 2000 years. Ancient mathematicians were interested in the relationship between the *chord* of a circle and the central angle, often for the purpose of astronomical measurement. It wasn't until 1595 that the term *trigonometry* (literally *triangle measure*) was coined and the functions were considered as coming from triangles.

As with a lot of grade-school mathematics, it is likely that you know several ways of getting at the basic trigonometric functions.

Definition 2.1. Here are several related definitions.

1. (a) Given a right triangle with *hypotenuse* (longest side) 1 and angle θ, define $\sin\theta$ and $\cos\theta$ to be the side lengths *opposite* and *adjacent* to θ.

   Define $\tan\theta = \frac{\sin\theta}{\cos\theta}$ to be the slope of the hypotenuse.

   (b) Given a right triangle with angle θ, *hypotenuse* r, *adjacent* x and *opposite* y, define

$$\sin\theta = \frac{y}{r} \qquad \cos\theta = \frac{x}{r} \qquad \tan\theta = \frac{y}{x}$$

2. (a) The co-ordinates $(\cos\theta, \sin\theta)$ describe a point on the unit circle where θ is the *polar angle* measured counter-clockwise from the positive x-axis.

   (b) The co-ordinates $(r\cos\theta, r\sin\theta)$ describe a point on the circle of *radius* $r \geq 0$ centered at the origin, where θ is again the polar angle. We call (r, θ) the *polar co-ordinates* of the point.

In either case, if $\cos\theta \neq 0$, we also define $\tan\theta = \frac{\sin\theta}{\cos\theta}$.

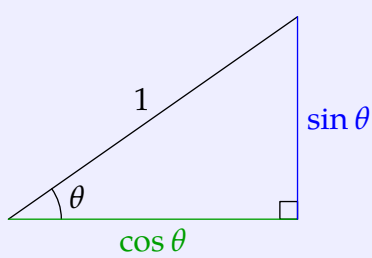

Definition 1(a)

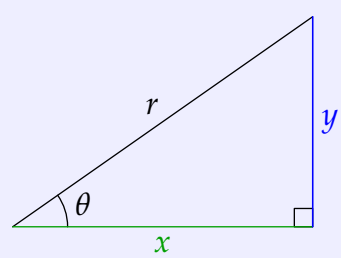

Definition 1(b)

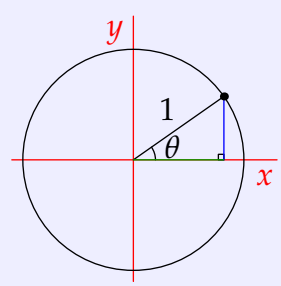

Definition 2(a)

Discuss some of the advantages and weaknesses of these definitions:

- What prerequisites are you assuming in each case?
- Is it easier to think about *lengths* rather than ratios?
- Where do you need basic facts from Euclidean geometry such as *congruent/similar* triangles?
- Convince yourself that that the triangle definitions follow from the circle definitions. What is missing if you try to use the triangle definition to justify the circle version?
- If you were introducing trigonometry for the first time, which approach would you use?

You might even have met other definitions, for instance using power (Maclaurin) series or differential equations. Plainly these are not suitable for grade-school, but have the great benefit of making the calculus relationship $\frac{\mathrm{d}}{\mathrm{d}\theta}\sin\theta = \cos\theta$ very simple. Establishing this using the triangle definition is a somewhat tricky!

Measuring Angles

There are two standard ways to measure angles (to sensibly associate a *number* to each angle).

Degrees A full revolution has 360° and a right-angle 90°. Degree-measure dates back to ancient Babylon 2–4000 years ago.[8]

Radians The radian measure of an angle is the length of the arc subtending the angle in a circle of radius 1. Since the circumference of a unit circle is 2π, we have the following identifications.

Degrees	Radians	$\sin\theta$	$\cos\theta$	$\tan\theta$
0°	0	0	1	0
30°	$\frac{\pi}{6}$	$\frac{1}{2}$	$\frac{\sqrt{3}}{2}$	$\frac{1}{\sqrt{3}}$
45°	$\frac{\pi}{4}$	$\frac{1}{\sqrt{2}}$	$\frac{1}{\sqrt{2}}$	1
60°	$\frac{\pi}{3}$	$\frac{\sqrt{3}}{2}$	$\frac{1}{2}$	$\sqrt{3}$
90°	$\frac{\pi}{2}$	1	0	n/a
180°	π	0	-1	0

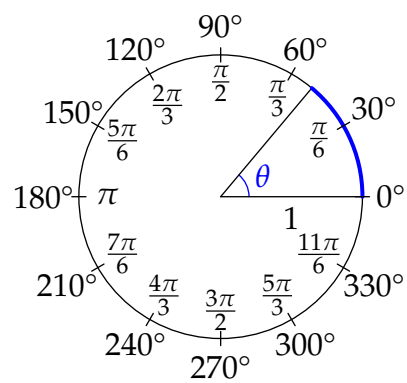

In elementary mathematics, degrees are the most common way to measure angles. Do you know any other methods?

[8] It is not known why they chose 360, but it fits nicely with their *base-60* system of counting (decimals are base-10). The traditional subdivisions of a degree are also base-60. For instance, 34°12′45" is 34 degrees, 12 (arc)minutes and 45 (arc)seconds; converted to decimal notation, this becomes

$$34°12'45'' = 34 + \frac{12}{60} + \frac{45}{60^2} = 34.2125°$$

The standard hour-minute-second measurement of time has the same origin.

Exercises 2.1. *Key concepts: Multiple definitions of sine and cosine, Degrees, Radians*

1. The identity $\cos^2\theta + \sin^2\theta = 1$ is the Pythagorean Theorem in disguise. Why?

2. The word *sine* is the result of a long list of translations and transliterations from an ancient Sanskrit term meaning *half-chord.* For the chord picture on page 29, how does the length of the chord crd θ relate to modern trigonometric functions?

3. It is conventional *not* to state units when using radians since they are effectively a ratio and therefore *unitless.* Think this through: if the central angle in a circle of radius r is subtended by an arc with length ℓ, what is the radian measure of the angle? What facts from basic geometry justify this observation?

4. Explain how to get the values of sine and cosine in the above table.

   (*Hint: Draw some triangles and use Pythagoras*!)

5. Using one of more pictures in Definition 2.1, explain why the following relations are true

$$\sin(\tfrac{\pi}{2} - \theta) = \cos\theta = \sin(\theta + \tfrac{\pi}{2}), \qquad \sin(-\theta) = -\sin\theta, \qquad \sin(\pi - \theta) = \sin\theta$$

   (*You cannot use graphs or the multiple-angle formulæ for this!*)

6. Consider the triangles in Definition 2.1. If you know the value of $\sin\theta$, what do you know about the values of $\cos\theta$ and $\tan\theta$?

   To be specific, if $\sin\theta = \frac{12}{13}$, what can you say about $\cos\theta$ and $\tan\theta$?

2.2 Periodicity, Graphs & Inverses

One advantage of the circle definition is that it makes sketching the graph of sine very easy. Simply draw axes next to a unit circle and transfer the height across!

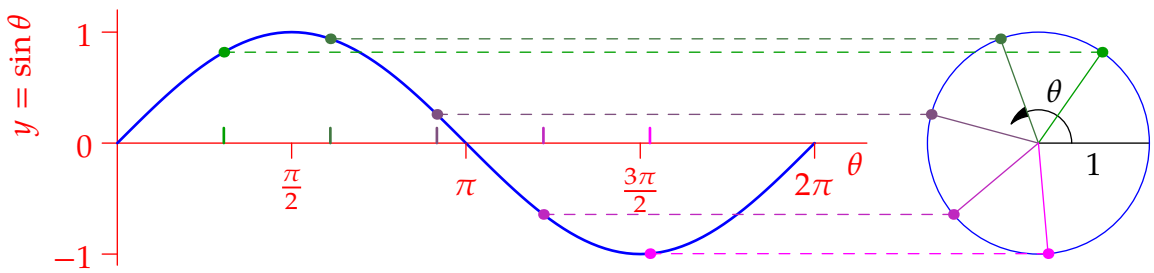

You *could* try the same trick for the cosine graph (plot the x-co-ordinate), though it is tricky to get the picture correct. Alternatively, by Exercise 2.1.5, the graph of $\cos\theta = \sin(\theta + \frac{\pi}{2})$ is simply that of sine shifted $\frac{\pi}{2} = 90°$ to the *left*.

The circle definition also allows us to extend trigonometric functions *periodically* since we can measure the polar angle by looping as many times round the origin as we like: that is, for any integer n,

$$\sin(\theta + 2n\pi) = \sin\theta, \quad \cos(\theta + 2n\pi) = \cos\theta$$

Otherwise said, sine and cosine have period 2π radians (360°).

Inverse Trigonometric Functions

Sine and cosine are *non-invertible* unless we choose a domain on which they are 1–1. The standard convention is to restrict to the domain $[-\frac{\pi}{2}, \frac{\pi}{2}]$: the graph should make it clear why.

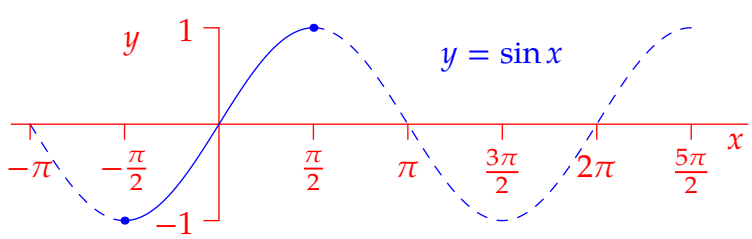

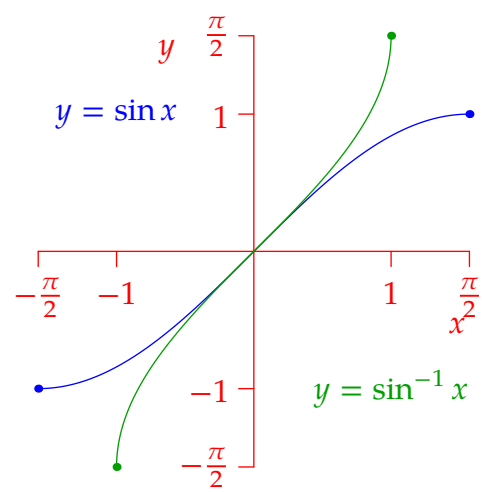

$f(x) = \sin x$ is 1–1 on the domain $[-\frac{\pi}{2}, \frac{\pi}{2}]$

Denote the inverse function $f^{-1}(x) = \arcsin x = \sin^{-1} x$

Domain $\mathrm{dom}(\arcsin) = [-1, 1] = \mathrm{range}(\sin)$

Range $\mathrm{range}(\arcsin) = [-\frac{\pi}{2}, \frac{\pi}{2}] = \mathrm{dom}(\sin)$

These choices are why your calculator returns a value in the interval $[-\frac{\pi}{2}, \frac{\pi}{2}] = [-90°, 90°]$ whenever you hit the $\sin^{-1}$ button.

Thinking about the inverse cosine and

Example 2.2. If you know the graphs, then symmetry and periodicity help you solve equations. For example, if $\sin\theta = \frac{9}{10}$ then all solutions are given by

$$\theta = \sin^{-1}\frac{9}{10} + 2\pi n \quad \text{or} \quad \pi - \sin^{-1}\frac{9}{10} + 2\pi n \qquad (n \text{ is any integer})$$

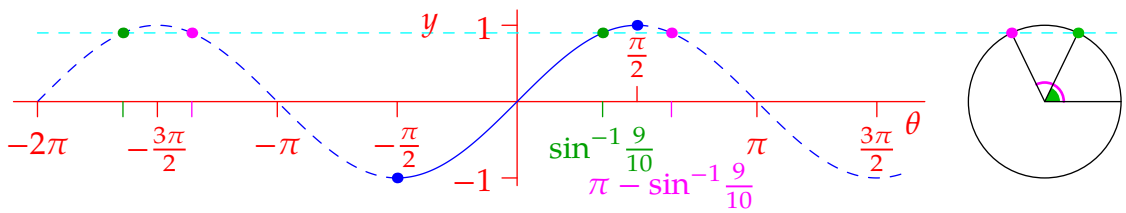

Alternatively, we could use the circle definition directly: $\sin\theta = \frac{9}{10}$ means we want angles θ corresponding to the intersections of the unit circle with the *horizontal line* $y = \frac{9}{10}$.

Periodic Models

Trigonometric functions find applications in modeling precisely because they are *periodic.* In general, a function has period T if

$$f(x+T) = f(x) \quad \text{for all } x$$

If k is constant, it is easy to find the period of the function $f(x) = \sin kx$ just by considering what we have to add to the input x to increase the argument kx by 2π:

$$T = \frac{2\pi}{k} \implies f(x+T) = \sin(kx + 2\pi) = \sin kx = f(x)$$

We may therefore obtain a simple periodic model regardless of what period is required.

Example 2.3. On a given day at the local pier, high tide occurs at 02:00 with a water depth of 10 ft and low tide at 08:12 with a depth of 4 ft.

We might model the water depth using a periodic function. Since it takes 6 hours and 12 minutes to go from high to low tide, the function should have period $T = 2\times 6\frac{12}{60} = \frac{62}{5}$ hours. In this case

$$h(t) = 7 + 3\cos\left(\frac{5\pi}{31}(t-4)\right)$$

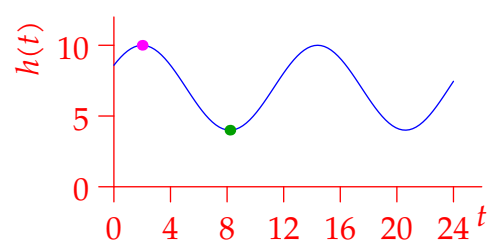

would do the trick, where t is measured in hours after midnight (is it clear why? How did we get this?).
In reality, tidal height is very close to being periodic, but the magnitude of the high and low tides are somewhat variable.

Fourier Series (non-examinable) In fact *any* periodic function may be approximated using trigonometric functions. This is easy to state if you are familiar with integration. If $f(x)$ has period T and we define constants

$$a_n = \int_{-\frac{T}{2}}^{\frac{T}{2}} f(x) \cos \frac{2\pi n x}{T} \, \mathrm{d}x, \qquad b_n = \int_{-\frac{T}{2}}^{\frac{T}{2}} f(x) \sin \frac{2\pi n x}{T} \, \mathrm{d}x \tag{$*$}$$

then

$$f(x) \approx \frac{a_0}{2} + a_1 \cos \frac{2\pi x}{T} + b_1 \sin \frac{2\pi x}{T} + a_2 \cos \frac{4\pi x}{T} + b_2 \sin \frac{4\pi x}{T} + \cdots \tag{$\dagger$}$$

This expression is called the *Fourier series* of $f(x)$. It often takes only a small number of terms to obtain a pretty good approximation. Modern data-compression algorithms often employ Fourier series. Given a periodic function $f(x)$, one estimate (say) the first 10 Fourier coefficients $(*)$—for a real-world function, this would likely be done by computer. The Fourier coefficients are transmitted to the receiver, who quickly recovers an approximation to the original function using $(\dagger)$.

Example 2.4. A square-wave function with period $T = 2\pi$ is given by

$$f(x) = \begin{cases} 1 & \text{if } 0 \le x < \pi \\ -1 & \text{if } \pi \le x < 2\pi \end{cases}$$

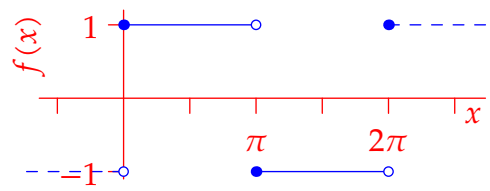

extended periodically to the real line. If you are comfortable with basic integrals, it is easily checked that the Fourier coefficients are

$$a_n = \int_{-\pi}^{\pi} f(x) \cos nx \, \mathrm{d}x = 0, \qquad b_n = \int_{-\pi}^{\pi} f(x) \sin nx \, \mathrm{d}x = \begin{cases} \frac{4}{\pi n} & \text{if } n \text{ is odd} \\ 0 & \text{if } n \text{ is even} \end{cases}$$

Use a graphics tool to see how the first few terms of the series approximate the function. The graph obtained by taking the first four non-zero terms is shown below.

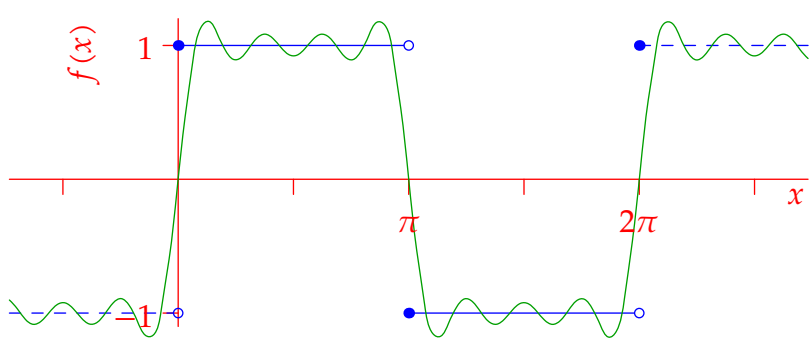

The graph of $y = \frac{4}{\pi}\left(\sin x + \frac{1}{3}\sin 3x + \frac{1}{5}\sin 5x + \frac{1}{7}\sin 7x\right)$

Exercises 2.2. *Key concepts: Finding the sine graph from a circle, Periodicity, Choosing a domain for inversion, Solving algebraic trigonometric equations, Modeling using periodic functions*

1. $f(x) = \sin x$ is also 1–1 on the interval $[\frac{\pi}{2}, \frac{3\pi}{2}]$. Sketch the graph of its corresponding inverse function.

2. Draw the graph for cosine and observe that it is invertible if we restrict the domain to the interval $[0, \pi]$. Draw the graph of $\cos^{-1}$.

3. Describe all solutions to the equation $\cos x = -0.2$.

4. (a) Explain why the tangent function has period π; that is $\tan(\theta + n\pi) = \tan\theta$. What facts are we using about sine and cosine and why are they obvious from the definition?

   (b) Graph the tangent function. Find an interval on which the tangent function is 1-1. Draw its inverse function.

5. Describe all solutions to the equation $\tan x = 5$.

6. (a) Suppose $\theta = \cos^{-1}\frac{9}{41}$. Find the exact values for $\sin\theta$ and $\tan\theta$.
   (*Hint: draw a right-triangle. Assume* $\cos^{-1}$ *means what your calculator thinks it does*...)

   (b) What changes if $\theta = \cos^{-1}\frac{-9}{41}$?

7. Let $f(x) = \csc x = \frac{1}{\sin x}$ be the cosecant function. Describe a domain on which this function is 1–1 and sketch the graph of its inverse $y = f^{-1}(x)$.

8. Use a computer to sketch the curve

$$y = 2\left(\sin x - \frac{1}{2}\sin 2x + \frac{1}{3}\sin 3x - \frac{1}{4}\sin 4x + \frac{1}{5}\sin 5x\right)$$

   What simple periodic function do you think this is approximating?